Unit 4 Test A

"We agreed to leave the coast of Peru and sail for Japan, since we knew that cloth was valuable merchandise there. So we sailed directly for Japan. The shogun, hearing of us, sent five boats to bring me to his court. He demanded to know why we had come so far. I answered: 'We the English are a people who seek friendship with all nations and trade with all countries, bringing the merchandise that our country produces.' He demanded also to know about the conflicts between Spain and Portugal and England and the reasons for them."

William Adams, English navigator and merchant, description of his voyage to Japan, 1611

1. Which of the following most directly facilitated the voyage mentioned in the passage?

(A) European access to Arabian and Indian shipping vessels

(B) European access to Chinese mapmaking knowledge

(C) European innovations in ship design and navigation ✓

(D) European contact with Polynesian mariners

Answer C

Correct. The voyage mentioned in the passage was made possible by European innovations in ship design and navigation.

2. Which of the following developments in the period 1450–1750 best explains the conflicts referred to in the passage?

(A) Imperial expansion in Africa

(B) Competition for trade in Asia ✓

(C) Expansion of the Mughal Empire

(D) Piracy in the East China Sea

Answer B

Correct. Portuguese, Dutch, British, and French merchants and states competed and often fought one another for access to Asian markets and resources.

3. Which of the following represents a primary difference in how Europeans conducted trade in the Atlantic region compared to how they conducted trade in Asia in the period 1450–1750 ?

Unit 4 Test A

(A) While European trade in the Atlantic was based on mercantilist policies, Europeans engaged in free trade and promoted freedom of the seas in Asia.

(B) While European trade in the Americas relied upon the extraction and circulation of silver, silver was not a significant medium of exchange in the Asian markets.

(C) While European trade in the Americas was generally peaceful, European navies overthrew large established empires in Asia.

(D) While European trade in the Americas involved extensive conquest and colonization, Europeans primarily concentrated on transporting goods between Asian regions. ✓

Answer D

Correct. As a result of their technological advantages and the devastation caused by the spread of infectious diseases, Europeans were able to conquer and colonize large parts of the Americas. By contrast, because existing trade networks in Asia were entrenched in well-established and powerful empires, European technology and organization did not provide the same advantages.

"In the course of the fifth year [1519] the terrible pestilence began. First there was a cough, then blood. The number of deaths at this time was truly terrible.

In 1520 the pestilence spread. Truly, the number of deaths among the people was terrible and the people could not escape from the pestilence.

In 1521 my father, King Hunyg, died. The elders and the priests died alike from the pestilence. Half the people threw themselves into the ravines to escape it. The oldest son of the king died at the same time as well as his young brother. Thus, our people became poor.

In 1524 the Spanish arrived in our country and destroyed our people. The Spanish conquered all the towns.

In 1542 Dominican friars arrived from Mexico, and they taught us the Doctrine of Christ in our language. Until that time we had been ignorant of the word and the commandments of God.

In 1560 the pestilence that had formerly raged among the people returned again. It was truly terrible when this death was sent among us by the great God. Many families disappeared. All here were soon attacked, and I was also attacked with the disease."

Historical chronicle of the Maya Kaqchikel people, composed and edited by different members of the Maya political elite in the Kaqchikel language, circa 1571–1604

4. All of the following pieces of evidence in the passage directly support the author's claim that the "pestilence" was "terrible" EXCEPT:

Unit 4 Test A

(A) The Maya king died in the epidemic.

(B) Fear of the disease drove Maya people to commit suicide.

(C) The disease killed members of the Maya elite, including elders and priests.

(D) The disease led to the arrival of Dominican friars. ✓

Answer D

Correct. The fourth and fifth paragraphs of the passage describe the arrival of the Spanish, but they do not use it as evidence to illustrate the toll of the "pestilence" on Maya society. It is likely that the author of the source was unaware of the causal connection between the Spanish conquest of Mexico and the spread of new infectious diseases. Since the arrival of the Spanish is not used as evidence in support of the author's argument about the "pestilence," it is the correct answer to the question.

5. Which of the following pieces of evidence does the author use to support his claim that the arrival of the Spanish "destroyed our people"?

(A) The Spanish spread infectious disease among the Maya.

(B) The Spanish conquered all Maya towns. ✓

(C) Maya people became poor.

(D) The Spanish assassinated the king's eldest son.

Answer B

Correct. The author directly uses the statement that the Spanish "conquered all the towns" as evidence of his claim that the arrival of the Spanish "destroyed our people."

6. Which of the following pieces of evidence does the author use to support his implicit argument that Maya society underwent a dramatic cultural change in the sixteenth century?

(A) Dominican friars knew the Maya language.

(B) The Maya were converted to Christianity. ✓

(C) The Maya nobility lost its social status.

(D) Maya people before the conquest were illiterate.

Unit 4 Test A

Answer B

Correct. The fifth paragraph states that, until the Dominican friars began their missionary efforts, the Maya had been "ignorant of the word and the commandments of God." This statement is used as evidence for the implicit argument in the passage that Maya society underwent a dramatic cultural change by converting to Christianity in the sixteenth century.

7.

The trend shown on the graph above is best explained by

(A) increased production of cash crops like sugar ✓

(B) growth of silver mining in New Spain

(C) industrialized textile mills' demand for raw cotton

(D) African slave-trading kingdoms' demand for European trade goods

Unit 4 Test A

"Seeing how vile and despicable the idol was, we went outside to ask why they cared about so crude and ungainly a thing. But they, astounded at our daring, defended the honor of their god and said that he was Pachacamac, the Maker of the World, who healed their infirmities. According to what we were able to learn, the devil appeared to their priests in that hut and spoke with them, and they entered there with petitions and offerings from the entire kingdom of Atahualpa, just as Moors and Turks go to the house in Mecca. Seeing the evil of what was there and the blindness of all those people, we gathered together their leaders and enlightened them. And in the presence of all, the hut was opened and torn down and with much solemnity a tall cross was raised over the seat which for so long the devil had claimed as his own."

Miguel de Estete, Spanish mercenary soldier, account of an expedition to

8. Which of the following long-term changes in the period circa 1550–1700 best demonstrates that the actions described by de Estete in the passage failed to fully achieve their goals?

(A) The development of a global economy based on Spanish exports of Andean silver

(B) American foods becoming staple crops in Eurasia

(C) The emergence of syncretic religious practices in the Americas ✓

(D) The growing Spanish dependence on coerced labor in the Americas

Answer C

This option is correct. Although the Spanish and Portuguese succeeded in imposing Roman Catholicism as the official religion in their American colonies and the Native American population did convert to Christianity, many Native American religious traditions were partly preserved in the syncretic beliefs and practices that emerged in the Americas after the European conquest.

9. The Spanish actions described in the passage differed from European attempts to promote Christianity in South and East Asia in the period 1450–1750 in that

(A) in South and East Asia, Europeans relied on established minority groups for help in spreading Christianity

(B) in South and East Asia, Europeans were unable to subjugate politically the powerful existing states ✓

(C) in South and East Asia, Europeans encountered strong local resistance and mass revolts against their attempts to establish political and cultural uniformity

(D) in South and East Asia, Europeans became too closely involved in local sectarian conflicts to be able to effectively promote Christianity

Answer B

This option is correct. While the Spanish, Portuguese, and other Europeans were able to conquer extensive

Unit 4 Test A

territory in the Americas, they were unable to challenge powerful states in Asia such as the Ottoman Empire, the Mughal Empire, and the Ming and Qing dynasties of China until after 1750.

"Colonel Robert Bennett, under the authority of the Governor of Jamaica, makes a treaty with the rebellious Blacks, today, June 23, 1739. Captain Quao, and several other Black officers under his command, surrendered under the following terms.

1. All hostilities on both sides shall cease forever, Amen.

2. Captain Quao and his people shall have a certain quantity of land given to them, in order to raise crops, hogs, fowls, goats, or whatsoever stock they may think proper, with sugarcanes excepted.

3. Four White men shall constantly live and reside with them in their town, in order to keep a good correspondence with the Black inhabitants of this Island.

4. Captain Quao and his people shall destroy all other rebellious Blacks in any part of Jamaica. They shall be paid to apprehend any runaway Blacks and return them to their respective owners.

5. If any White man shall disturb or annoy any of the people or property that may belong to the said Captain Quao and his people, they may complain to a magistrate and receive justice."

Treaty between British colonial authorities and the Windward Maroons, Jamaica, 1739. The Windward Maroons were descendants of Africans brought to the Americas in the sixteenth and seventeenth centuries who had fled to the mountainous regions of the island.

10. The actions of the Maroons that forced British colonial authorities to conclude a treaty with them are best explained as evidence of reactions against which of the following global trends in the period 1450–1750 ?

(A) The persistent spread of epidemic diseases

(B) The continuing impoverishment of indigenous populations resulting from agricultural transfers

(C) The increase in armed conflict resulting from state rivalries over control of trade routes

(D) The increasing expansion and centralization of state power ✓

Answer D

Correct. The Maroons' conflict with the British took place within the context of European and especially British colonial expansion and the centralization of state power, which contributed to encouraging local populations to resist greater state power.

11. The passage could best be used to explain which of the following developments in the Americas in the period 1500–1750 ?

Unit 4 Test A

(A) Enslaved peoples and their descendants were frequently recruited into the armies of colonial empires.

(B) Some of the descendants of enslaved peoples gradually came to own large sugar plantations.

(C) Some enslaved peoples won their freedom by taking legal action against plantation owners in colonial courts.

(D) Enslaved peoples and their descendants used violent means to escape oppression and maintain their freedom. ✓

Answer D

Correct. The treaty clearly indicates that the Maroons used violence and that their use of violence allowed them to secure a treaty with the British government acknowledging their freedom and awarding them lands of their own.

12. Article 4 of the treaty is best explained as evidence of how states in the period 1450–1750 sought to

(A) suppress resistance to their rule by co-opting local groups ✓

(B) grant military titles as a way of encouraging the loyalty of their subjects

(C) provide financial incentives to minority populations to participate in local administration

(D) promote intermarriage between different ethnic populations in order to reduce conflict

Answer A

Correct. Article 4 requires Captain Quao and his Maroon troops to destroy other rebel Black forces in exchange for the British granting them land and making other concessions, demonstrating that the British government was attempting to use diplomacy to gain the cooperation of one rebel group to suppress other rebel groups.

Unit 4 Test A

AGOSTINO BRUNIAS, ITALIAN PAINTER, PAINTING SHOWING FREE WOMEN OF MIXED RACIAL ANCESTRY WITH THEIR CHILDREN AND SERVANTS IN DOMINICA, A BRITISH COLONY IN THE WEST INDIES, LATE EIGHTEENTH CENTURY

Free Women of Color with Their Children and Servants in a Landscape, 1770-1796 (oil on canvas) , Brunias, Agostino (1728-96) / Brooklyn Museum of Art, New York, USA / Gift of Mrs. Carll H. de Silver in memory of her husband, by exchange and gift of George S. Hellman, by exchange / Bridgeman Images

13. Which of the following best explains why the painting was seen as a challenge to social conventions when it was painted?

(A) Women were rarely the subject of paintings in European art of the period.

(B) Caribbean society was built on racial hierarchies that generally reserved elite status for people of European ancestry. ✓

(C) In most cultures of the period, children were not considered worthy of being portrayed in art until they reached adulthood.

(D) Caribbean society was predominantly matriarchal, with men expected to play strictly domestic roles in the household.

Answer B

Correct. Brunias' painting was seen as a challenge to social conventions when it was painted because it showed some people of color behaving in ways similar to Europeans, a perspective that questioned common depictions of Caribbean society as built on racial hierarchies that placed African slaves and their descendants at the bottom.

Unit 4 Test A

14. Which of the following most directly led to the arrival of substantial numbers of Africans in the Americas at the time of the painting?

(A) The collapse of the Inca and Aztec Empires as a result of Spanish invasion

(B) The growth of industrial production in the United States

(C) The expansion of the plantation system for growing sugarcane and other crops ✓

(D) The development of large-scale silver mining operations in South America

Answer C

Correct. The expansion of the plantation system for growing sugarcane and other crops resulted in a sharp increase in the demand for labor in the West Indies, while rising sales of sugar and other colonial products in Europe provided planters with opportunities to obtain the capital needed to import a substantial number of enslaved Africans at the time of the painting.

[Testimony by the creole (European-ancestry) members of a lay religious brotherhood in the town of San Juan Peribán.]

"Cristobál Bernal was elected chair of our brotherhood by a margin of only two votes. Most votes in Bernal's favor came from mulatto and mestizo brothers. However, we, the creole brothers, elected Don Carvajal, a resident of the town and owner of the hacienda and sugar mill there. We urge you to command that only creoles should vote for the positions of chair and deputy chairs and that neither mulattoes nor mestizos can serve in those positions, and that a new election must be held for these positions."

[Response by the mulatto and mestizo brothers]

"Since the brotherhood was founded, it has had the ancient custom of voting for and electing mulattoes and mestizos as deputies. And mestizos and mulattoes make up most of the membership and help the brotherhood grow. And mestizo and mulatto brothers had donated land, which earns 25 pesos rent per year for the brotherhood. And mulatto and mestizo brothers also collect alms for the brotherhood. If this brotherhood were actually two—one for creoles only and the other for mulattoes and mestizos—then the petitioners might have a case. But there is only one brotherhood in which creoles, mestizos, and mulattoes are mixed and, being members of it, they must enjoy the rights and advantages of the said brotherhood. Without question these rights should include voting and electing their own chair and deputies."

[Judge's decision]

"The election is declared valid, and Bernal is confirmed as chair."

15. The dispute described in the court case is most directly an effect of which of the following processes in colonial American societies?

Unit 4 Test A

(A) The economic tensions between landowning elites and landless peasants

(B) The emergence of new syncretic forms of religious beliefs and rituals

(C) The demographic collapse of the indigenous Amerindian population as a result of the spread of infectious disease

(D) The formation of new identities as part of the restructuring of social hierarchies ✓

Answer D

This option is correct. The activism of the mulatto and mestizo members of the lay brotherhood suggests that Mexico's mulatto and mestizo populations were beginning to assert claims to rights that challenged the existing social hierarchy.

16. Based on the passage and your knowledge of world history, which of the following can be inferred about the economic hierarchy in San Juan Peribán?

(A) Mulattoes and mestizos had no property rights and worked as tenant farmers on creole-owned plantations.

(B) Creoles were predominantly employed in commerce and administration, whereas mulattoes and mestizos were predominantly employed in agriculture.

(C) Mulatto and mestizo communities had some economic resources, but creoles were still economically dominant. ✓

(D) Creoles were being outcompeted economically by their mulatto and mestizo counterparts and were becoming impoverished as a result.

Answer C

This option is correct. As reflected in the description of mulatto and mestizo brothers' economic contributions to the brotherhood, members of these groups had access to some economic resources. However, based on historical knowledge of the predominant racial and social hierarchy in Spanish colonies, it can be inferred that creoles had access to greater economic resources than mestizos and mulattos.

Unit 4 Test A

PORTUGUESE IVORY PLAQUE REPRESENTING THE CHRIST CHILD ON A SAILING SHIP, PRODUCED IN PORTUGUESE GOA,* EARLY SEVENTEENTH CENTURY

© The Trustees of the British Museum

*Goa is located on the southwestern coast of India.

17. The production of the plaque in Goa is best understood in the immediate context of which of the following?

(A) The establishment of plantation economies

(B) The spread of printing-press technology

(C) The development of trading-post empires ✓

(D) The decline of Asian states such as the Mughal Empire

Answer C

Correct. The production of the ivory plaque in a Portuguese territory in the Indian Ocean is most directly situated in the creation of a Portuguese trading-post empire that spread throughout the Atlantic and Indian oceans.

Unit 4 Test A

18. A likely purpose for including the religious figure in the plaque was to show that

(A) salvation for the Portuguese inhabitants of Goa could be obtained only by rejecting material wealth

(B) Portuguese naval activities in the Indian Ocean region were favored by divine forces ✓

(C) because of their belief in the prophecy of Jesus, the Muslim inhabitants of Goa could also obtain salvation

(D) Jesus was going to provide the Portuguese with new sailing technologies for their ships if they continued to follow him

Answer B

Correct. The Christ Child image standing atop a triumphant sailing vessel suggests that the intent of the artist was to claim that Portuguese naval voyages and activities in the region have divine sanction.

19. The implicit claim made by the image about a connection between religious devotion and maritime exploration best demonstrates which of the following in the period circa 1450–1750 ?

(A) Increasing global connections expanded the reach of existing religions. ✓

(B) Church authorities argued that religious diversity should be respected and protected.

(C) The intensification of cross-cultural interactions resulted in the development of syncretic religions.

(D) Religious motivations for European exploration and colonization were secondary to economic motivations.

Answer A

Correct. The symbolism of the image can be read as a claim that Portuguese maritime exploration is aided and protected by God, and, in an object made by a Portuguese artist in a Portuguese trading post in India, this claim demonstrates how the increase in global connections made possible by European maritime exploration expanded the geographic reach of Christianity.

Unit 4 Test A

CLOVE* PRICES IN SOUTHEAST ASIA AND IN AMSTERDAM, 1580–1850
(in Spanish silver *reals*, a common trade currency in the East Indies)

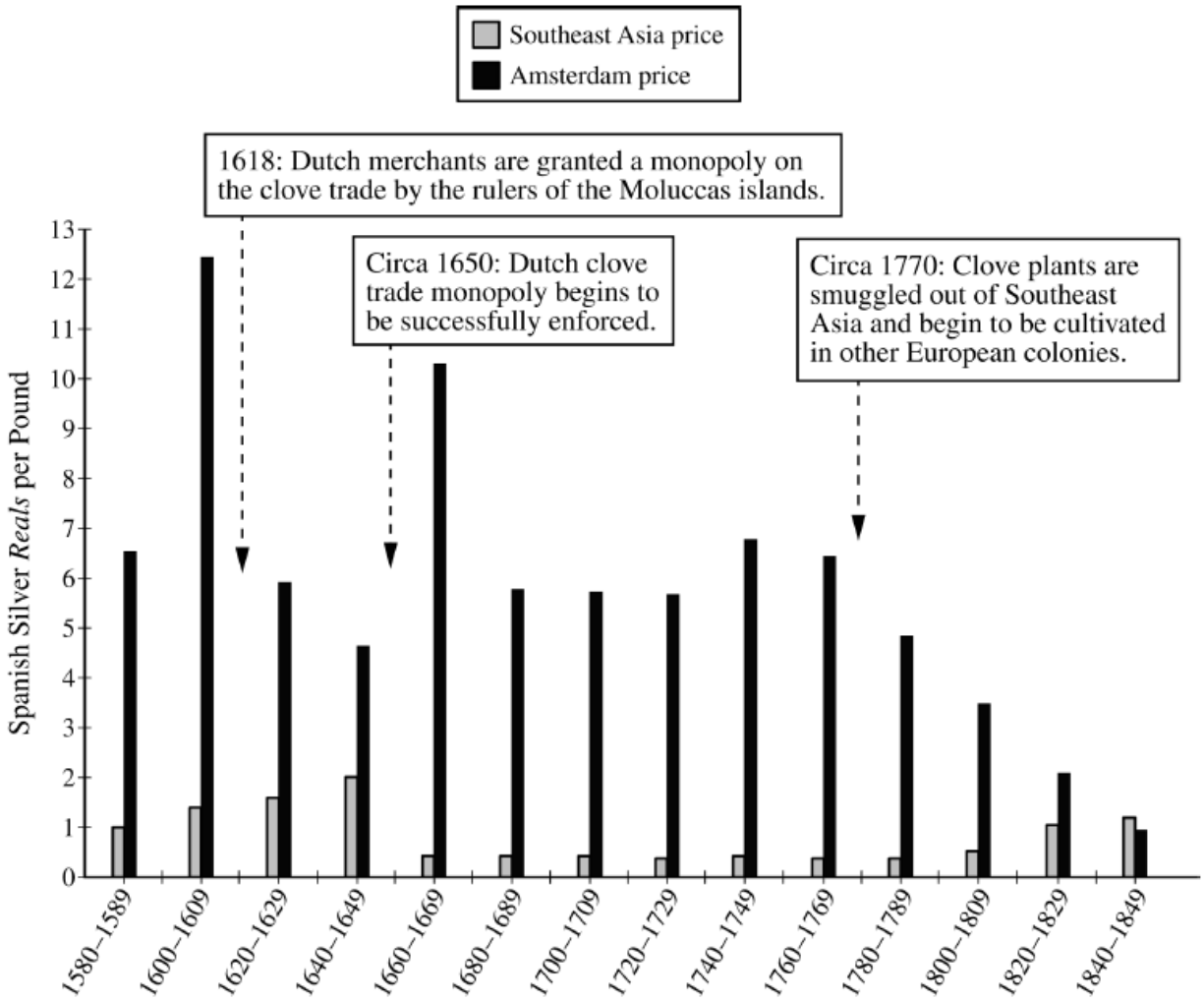

*Cloves are spices native to the Moluccas islands in eastern Indonesia and, until the late eighteenth century, grown only in Southeast Asia.

Source: David Bulbeck, Anthony Reid, Lay Cheng Tan, and Yiqi Wu, eds. *Southeast Asian Exports Since the 14th Century: Cloves, Pepper, Coffee, and Sugar*, (Leiden, The Netherlands, KITLV Press), 1988. Graph 2.2., p. 57

20. On a global scale, which of the following most directly led to the expansion of the trade between Europe and Asia in the time period reflected in the chart?

Unit 4 Test A

(A) European merchants' role in exporting European manufactured goods to Asia

(B) The consistently high demand for European luxury goods among Chinese customers

(C) The shifting balance of trade as a result of the circulation of American silver ✓

(D) The collapse of existing Indian Ocean trading networks

---

21. In the period 1500 to 1750, the population of the Portuguese colony of Brazil grew rapidly and became predominantly African. Which of the following best explains these demographic changes?

(A) The adoption of indigenous food crops by African migrants

(B) Portuguese loss of colonial holdings in the Indian Ocean

(C) The rapid natural increase of Brazil's early slave population

(D) The increase in global demand for cash crops such as sugar ✓

22. Which of the following best describes the Mughal Empire?

(A) A political-economic-social system that recognized equality of all citizens

(B) A system in which an Islamic minority ruled over a Hindu majority ✓

(C) A government based on an examination system

(D) A social and political system that sought to value equally its Islamic, Christian, Hindu, and Buddhist populations

(E) The rule of a Hindu majority over a Buddhist minority

Unit 4 Test A

23.

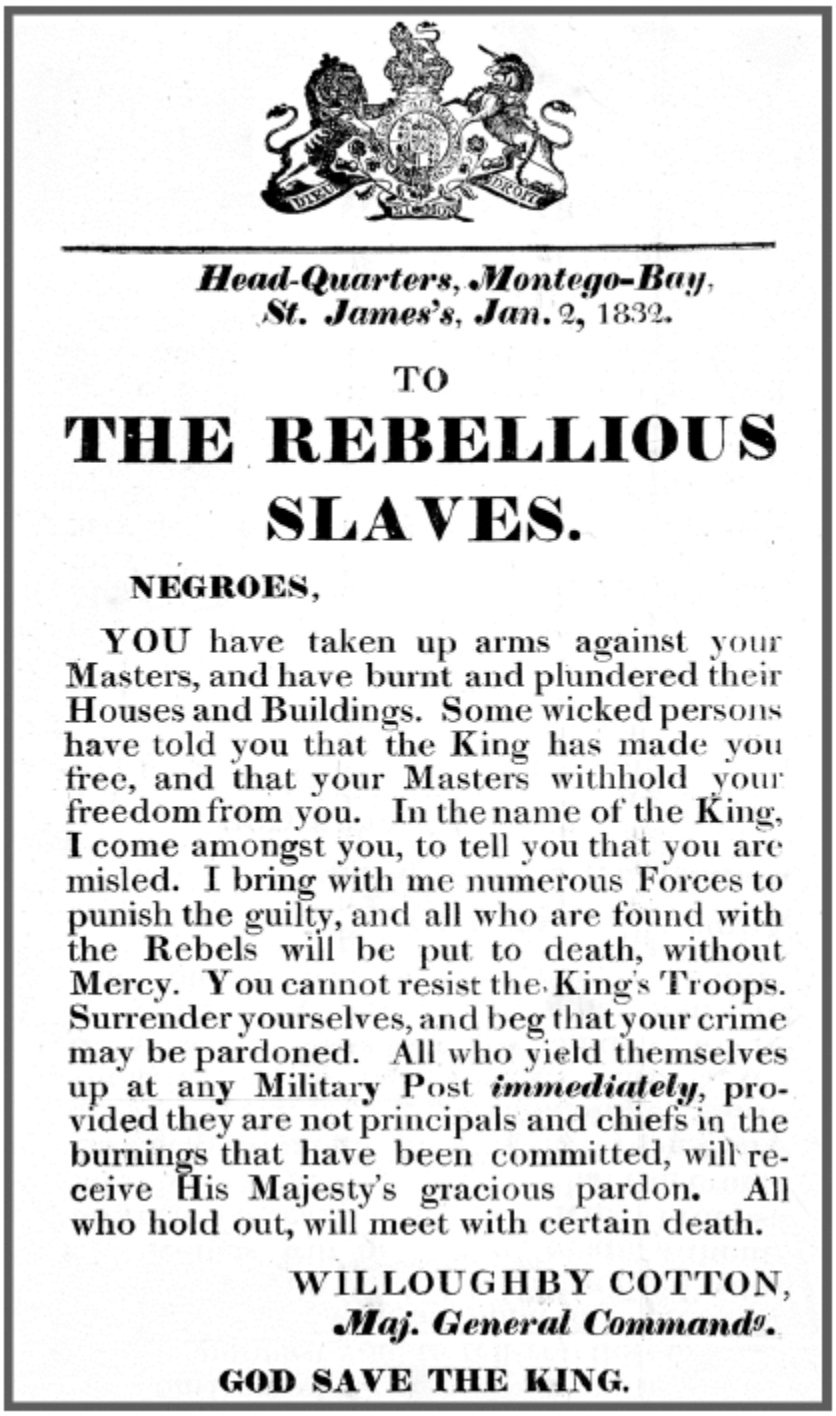

Head-Quarters, Montego-Bay,
St. James's, Jan. 2, 1832.

TO

THE REBELLIOUS SLAVES.

NEGROES,

YOU have taken up arms against your Masters, and have burnt and plundered their Houses and Buildings. Some wicked persons have told you that the King has made you free, and that your Masters withhold your freedom from you. In the name of the King, I come amongst you, to tell you that you are misled. I bring with me numerous Forces to punish the guilty, and all who are found with the Rebels will be put to death, without Mercy. You cannot resist the King's Troops. Surrender yourselves, and beg that your crime may be pardoned. All who yield themselves up at any Military Post ***immediately***, provided they are not principals and chiefs in the burnings that have been committed, will receive His Majesty's gracious pardon. All who hold out, will meet with certain death.

WILLOUGHBY COTTON,
Maj. General Command^g.

GOD SAVE THE KING.

Courtesy of The National Archives

Commander Cotton's reaction to the events in Jamaica, in the notice above, might best be understood in the context

Unit 4 Test A

of which of the following?

(A) The expansion of the trans-Atlantic slave trade across the Caribbean

(B) Mounting resistance to slavery in the Americas, reflected in challenges to imperial authority ✓

(C) Growing profitability of plantation slavery in the Americas

(D) The waning influence of religious ideas and millenarianism in nationalist conflicts

24. The success of European powers in penetrating the Asian trading system by 1600 can best be explained by the

(A) Asian demand for luxury goods

(B) European use of steam power

(C) high demand for European agricultural produce in China and India

(D) lower prices of European manufactured products

(E) opening of rich silver mines in Peru and Mexico ✓

THE TRANS-ATLANTIC SLAVE TRADE, CIRCA 1450–1900

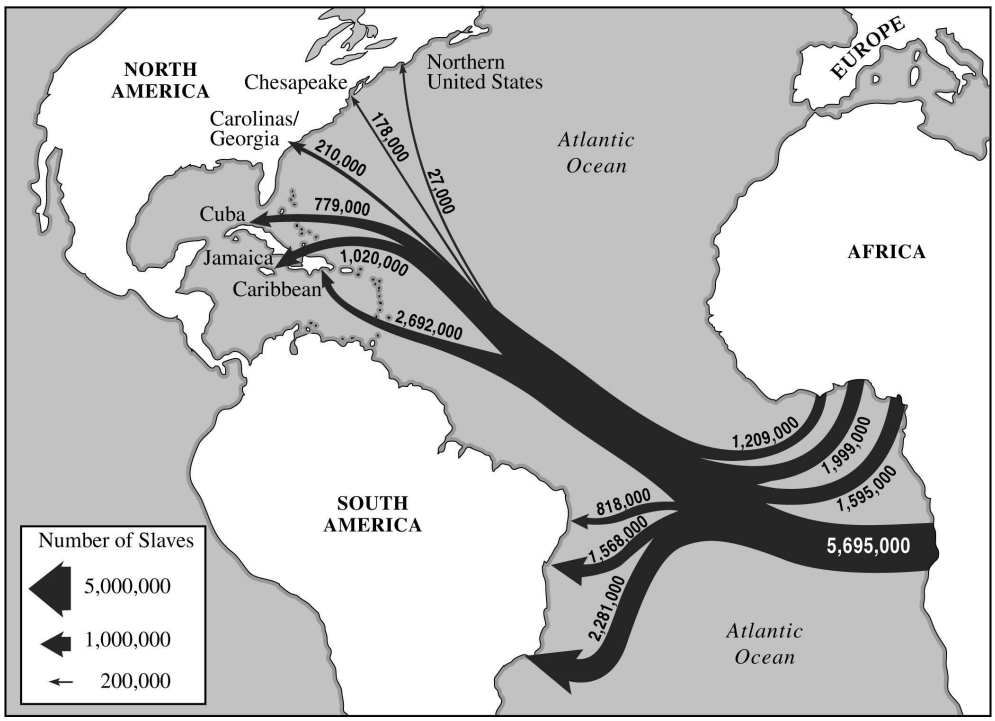

25. All of the following were significant environmental effects of the trade illustrated on the map EXCEPT

Unit 4 Test A

(A) the spread of Afro-Eurasian diseases in the Americas
(B) soil depletion and erosion from intensive agriculture in the Caribbean
(C) American foods becoming staple crops in Africa
(D) air pollution resulting from the increased exploitation of fossil fuels ✓

"The Mexican city of Zacatecas is renowned for the enormous quantity of silver that has been extracted from it and continues to be extracted today. At the time of the discovery of the silver, there were many forests and woodlands in this rocky land, all of which have since vanished so that now except for some little wild palms, no other trees remain. Firewood is very expensive in the city because it is brought in carts from a distance of eighteen hours away.

The silver was discovered in the year 1540, in the following way: after the fall of the Aztec Empire, Spanish soldiers remained, spread over the entire country. Since no more towns remained to conquer and since they had so many Indian slaves, they devoted themselves to seeking riches from silver mines. One of these soldiers was Juan de Tolosa, who happened to have an Aztec among his Indian slaves. The Aztec, it is said, seeing his master so anxious to discover mines and to claim silver, told him: 'If you so desire this substance, I will take you where you can fill your hands and satisfy your greed with it.'

The city houses at least 600 White residents, and most of them are Spaniards. There are about 800 Black slaves and mulattoes*. There are about 1,500 Indians in the work gangs who labor in all types of occupations in the mines."

Alonso de la Mota y Escobar, Bishop of Guadalajara, Mexico, geographical treatise, 1605

*a person of mixed European and African ancestry

26. The ethnic makeup of Zacatecas, as described in the passage, can best be used as evidence of which of the following?

(A) The dependence of colonial economies on coerced labor ✓
(B) The social tensions that gave rise to the Latin American wars of independence
(C) The development of indentured servitude as an alternative to slavery
(D) The emergence of syncretic religious belief systems, such as Santería and Candomblé

"This spring, those Indians who lived in their trading house here fell sick with smallpox, and died most miserably. They fear smallpox more than any other disease because it is very common among them. The condition of this people was so lamentable, and they suffered so greatly from this disease that they were, in the end, not able to help each other, or make a fire, or fetch water to drink.

Those of us in the English settlement, seeing their woeful and sad condition, took pity on the Indians and daily fetched them wood and water, and food. Nonetheless, very few of the Indians survived. But by the marvelous goodness of God, not one of the English colonists was stricken or infected by the disease at all, though many performed these favors for the Indians for weeks."

William Bradford, English settler in the Plymouth Colony in North America, diary entry for the year 1633

Unit 4 Test A

27. The author uses all of the following as evidence to support his argument about the impact of smallpox on Native American populations EXCEPT

(A) many Native Americans who contracted smallpox died from it

(B) the English settlers tried to help the Native Americans who were afflicted with smallpox ✓

(C) the Native Americans feared smallpox more than any other disease

(D) smallpox was widespread among Native Americans

Answer B

Correct. While Bradford mentions that some English took pity on the Native Americans and tried to help them, this fact does not provide evidence about the effects of smallpox on Native American populations. Since Bradford does not use this statement as evidence to support his argument, it is the correct answer to this question.

28. The author invokes which of the following to support his claim that smallpox's impact on European settlers was different from its impact on Native Americans?

(A) Pseudoscientific theories of European racial superiority

(B) Evidence from population genetics

(C) Ideas about the role of divine providence in human affairs ✓

(D) Protestant ideas about hard work and economic success as markers of personal virtue

Answer C

Correct. Bradford credits divine providence, in other words the belief that God is protecting the English settlers who tried to care for the Native Americans stricken by smallpox.

29. The passage implies that the author was aware of smallpox being an infectious disease. Which of the following can best be cited as evidence of that claim?

(A) The author's statement that Native Americans lived in a "trading house" near the English settlement

(B) The author's statement that smallpox was so debilitating that those afflicted with it could not "make a fire, or fetch water to drink"

(C) The author's statement that the English settlers "took pity" at the sight of the Native Americans' suffering

(D) The author's statement that no English settlers fell ill, even though "many performed these favors for the Indians for weeks" ✓

Unit 4 Test A

Answer D

Correct. This statement shows that Bradford recognized there was risk in caring for Native Americans afflicted by smallpox because he expresses relief and gratitude that no English settlers fell ill.

Unit 4 Test A

Map 1

NAVIGATIONAL MAP PRODUCED BY ALBINO DE CANEPA, GENOESE MAPMAKER, 1489

©The History Collection / Alamy Stock Photo

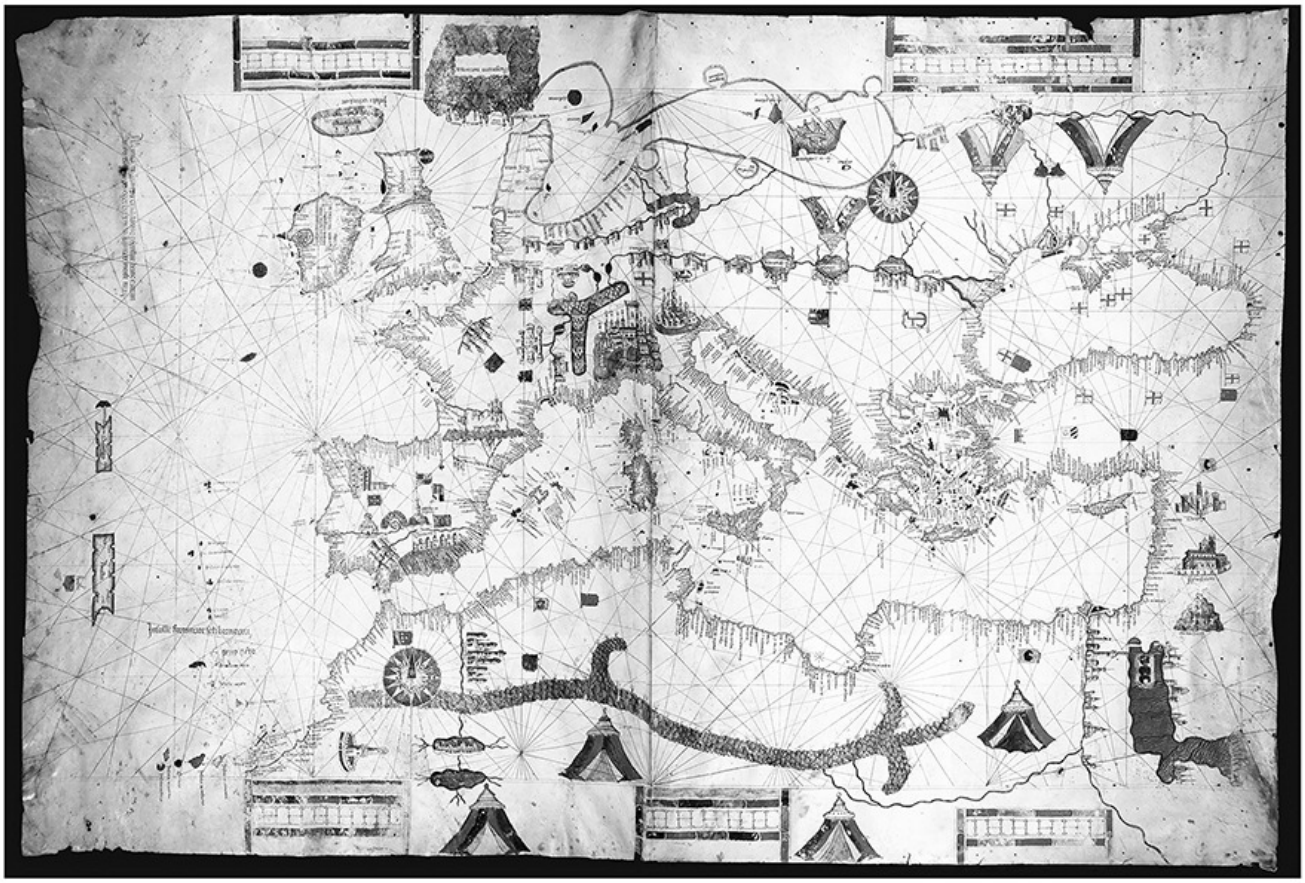

The map shows a number of cities and places, including Genoa, Venice, Paris, the Muslim emirate of Granada, Algiers, Cairo, Jerusalem, Damascus, and several cities along the Danube River.

Map 2

Unit 4 Test A

WORLD MAP, PRODUCED BY HENRICUS MARTELLUS, A GERMAN CARTOGRAPHER WORKING IN FLORENCE, ITALY, EARLY 1490s

©The Picture Art Collection / Alamy Stock Photo

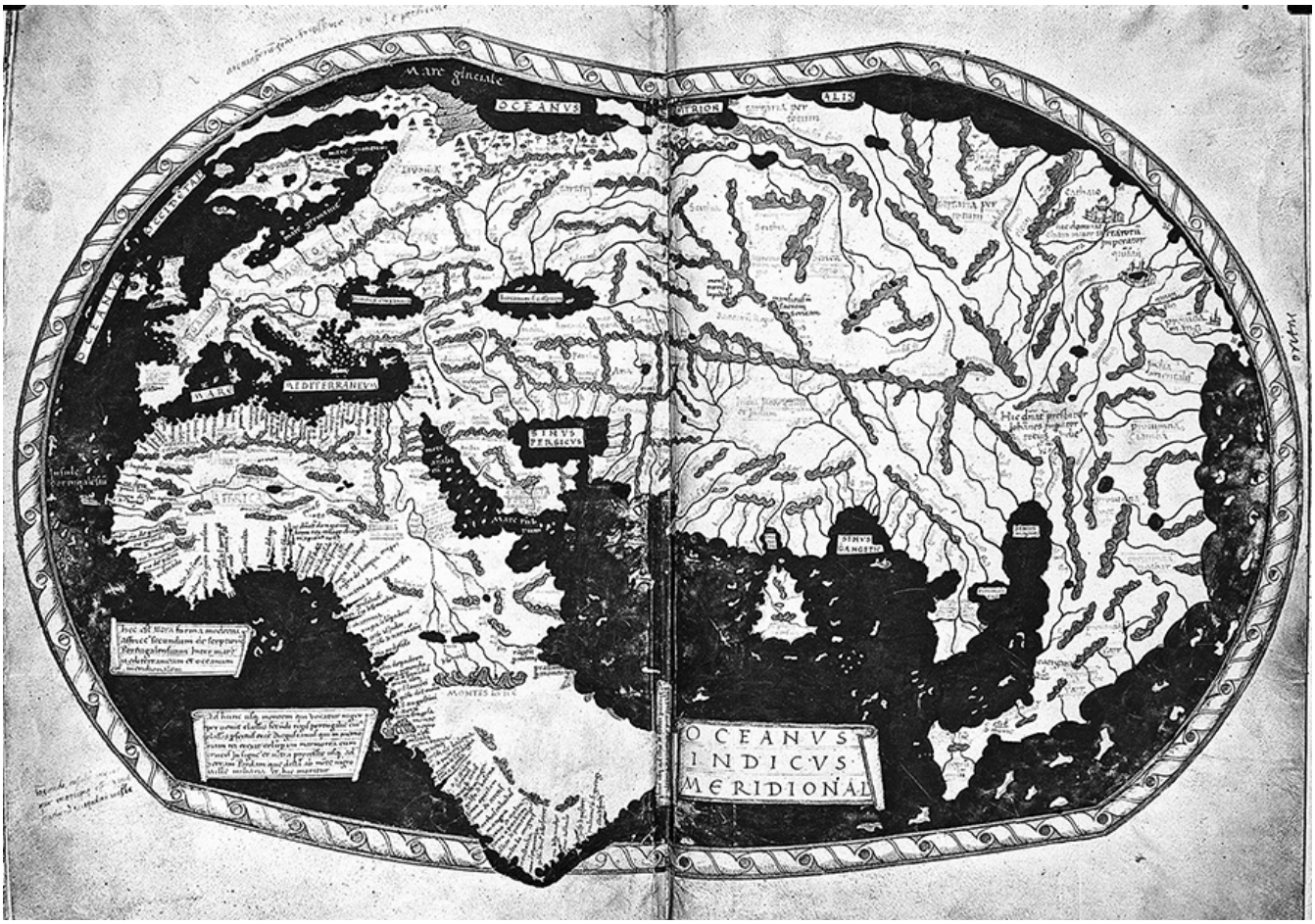

30. Which of the following historical developments most strongly contributed to the mapmaker's depiction of West Africa and the southern half of the world in Map 2 ?

(A) Portugal's development of maritime technology and navigational skills ✓

(B) China's naval expeditions in the Indian Ocean basin

(C) The limited geographical knowledge of western European mapmakers as a result of the region's commercial isolation

(D) The decline of Mediterranean powers such as Genoa and Venice and the rise of Atlantic powers such as England, France, and the Netherlands

31. A historian would most likely use Map 1 to research which of the following developments in the period 1450–1750 ?

Unit 4 Test A

(A) The efforts of wealthy Renaissance patrons to encourage the fine arts and scientific research

(B) The ways that European cartography drew on earlier knowledge from the Islamic world and merchant activity in the Mediterranean ✓

(C) The influence of Crusades against the Ottoman Empire on the commercial expansion of Italian city-states

(D) The consolidation of the Russian Empire, its expansion into Siberia, and its challenge to imperial China

32. Which of the following factors would contribute most to future revisions of Map 2 ?

(A) Western Europeans' discovery of geographical scholarship from the Mongol khanates

(B) The experiences of European merchants transporting Asian goods in the Indian Ocean

(C) Spanish sponsorship of trans-Atlantic and trans-Pacific maritime exploration ✓

(D) Qing China's resumption of maritime expeditions to expand its tribute system

---

33. "Migration of man and his maladies is the chief cause of epidemics. And when migration takes place, those creatures who have been in isolation longest suffer most, for their genetic material has been least tempered by the variety of world diseases. Among the major subdivisions of the species *Homo Sapiens*, the American Indian probably had the dangerous privilege of the longest isolation from the rest of mankind."

Alfred Crosby, world historian, 1967

Which of the following best describes Alfred Crosby's argument in the passage above?

(A) Various Amerindian groups did not have contact with each other before 1492.

(B) Amerindians' long isolation from the rest of the world had placed them at a biological disadvantage. ✓

(C) The genetic makeup of the native population of the Americas remained unchanged until 1492.

(D) By 1492 Amerindians generally had migrated for shorter distances than had other groups.

Unit 4 Test A

JAPANESE *FUMI-E* ("STEPPING-ON PICTURE"), A TYPE OF METAL PLATE CARVED WITH CHRISTIAN IMAGERY, USED BY THE JAPANESE GOVERNMENT TO IDENTIFY SUSPECTED CHRISTIANS, CIRCA 1630

Heritage Images / Contributor

Japanese authorities required suspected Japanese Christians to tread on fumi-e plates based on the belief that Christians would refuse to disrespect images of Jesus Christ and other Christian religious figures.

34. The object shown in the image is best understood in the context of which of the following developments between 1450 and 1750 ?

(A) The introduction of Chinese religious and cultural influences in Japan

(B) The fall of the Tokugawa Shogunate and restoration of direct imperial rule

(C) The growth of Russian cultural influence in East Asia as a result of the Russian expansion into Siberia

(D) The influence of European merchants and missionaries along Asian maritime trade routes ✓

Answer D

Correct. Trade routes had brought both European merchants and missionaries to Japan, eventually leading to a backlash against foreign influences such as Christianity under the Tokugawa regime.

35. The use of objects such as the one shown in the image best illustrates which of the following historical processes from 1450 to 1750 ?

Unit 4 Test A

(A) Some Asian states sought to limit foreign encroachment in their internal affairs. ✓

(B) Political leaders in Asia commissioned works of art to legitimize their rule.

(C) Religious conversion by state rulers was often followed by the mass conversion of state populations.

(D) The territorial expansion of Asian land-based empires limited European influence in many parts of Asia.

Answer A

Correct. States such as China and Japan imposed restrictions on Christian missionary activity in hopes of reducing or eliminating foreign, particularly European, influence in their countries.